Student ID:_____

Name:_____

Full Mark is 41.

Duration: 35 minutes

Score:_____

G1 Vocabulary Quiz - 2

1.

Write the name of each angle or shape below each diagram:

[1 mark each, 23 marks]

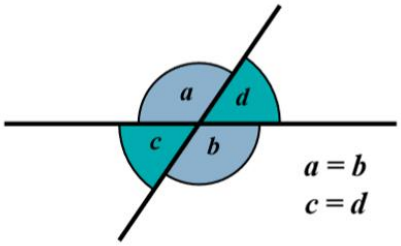

Vertically opposite angles (are equal)

acute angle

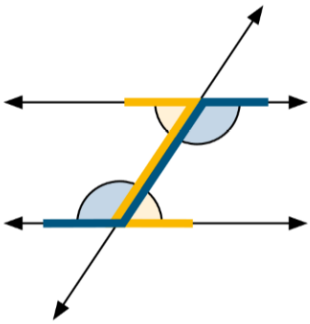

alternate angles (are equal)

obtuse angle

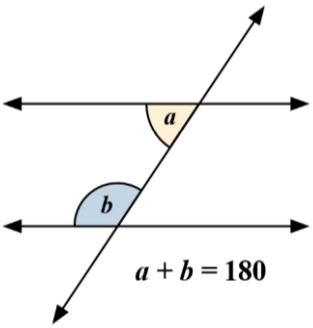

allied (or co-interior) angles (add up to 180)

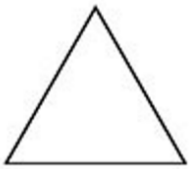

(three equal sides)

equilateral triangle

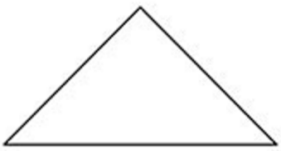

(two equal sides)

isosceles triangle

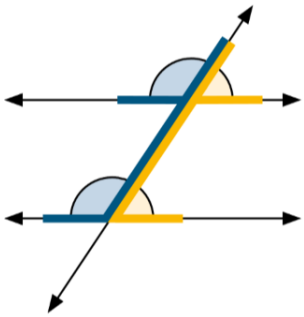

Corresponding angles (are equal)

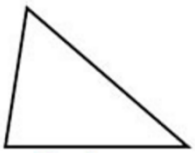

(no equal sides)

scalene triangle

right angle



Reflex angle

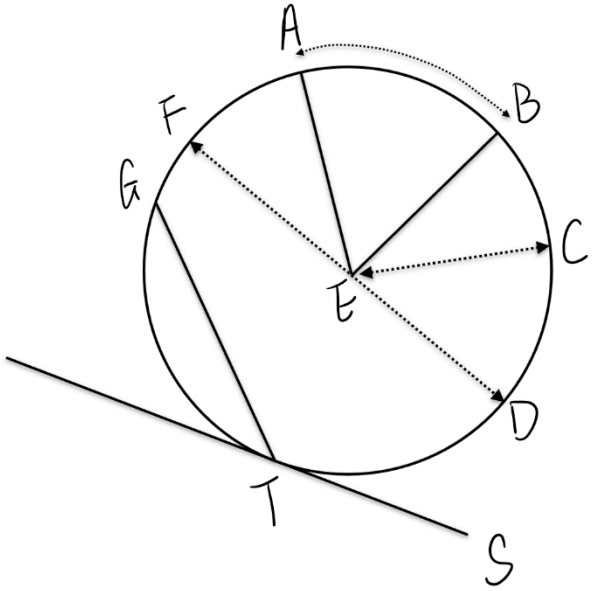

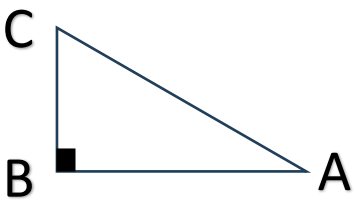

Write the appropriate mathematical terms for each of the following sides:

AB is the _adjacent___ side of angle A

BC is the _opposite__ side of angle A

AC is the __hypotenuse_ side.

Shade the **minor** segment and **major** sector in the circle below: [2 marks]

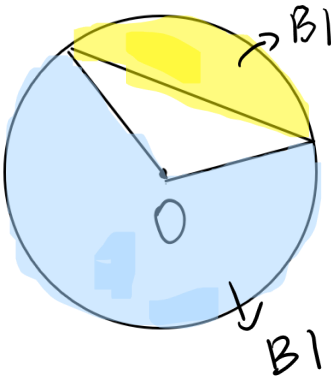

GT	AB	CD	EF	TS	DF	chord
tangent	sector			secant	segment	
πr^2			$2\pi r$			

Fill the blank space by using the answers provided in the box above. You may not use all the answers in the box.

- Radius is _____EF____
- Diameter is ____DF_____
- Chord is ____GT____
- Arc is ___AB_____ and ____CD_____
- The straight-line TS is a _____tangent_____ line to the circle.
- The formula of the circumference of a circle is _____$2\pi r$ _____

2.

Write names of following polygons [1 mark each] [7 marks]

square is okay

quadrangle/quadrilateral/tetragon

pentagon

hexagon

heptagon

octagon

nonagon

decagon

3.

Write the conditions for congruent triangles: [1 mark each] [4 marks]

SAS

ASA

SSS

RHS (or HL)

4.

Write the geometric reason for following circle properties: [1 mark each] [7 marks]

The highlighted part is usually the key words to get the mark in the mark scheme in the exam.

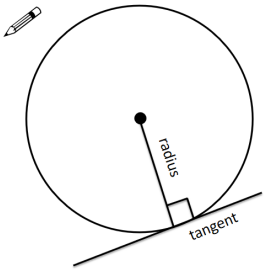

A tangent to a circle is perpendicular (or 90 degree) to the radius.

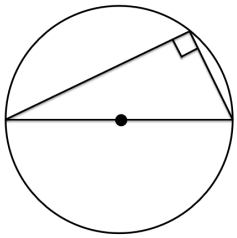

The angle in a semicircle is a right angle (or 90 degree)

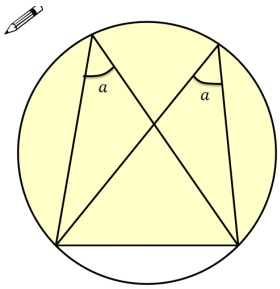

Angles in the same segment are equal

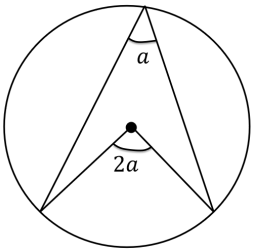

The angle at the centre of a circle is twice the angle at the circumference.

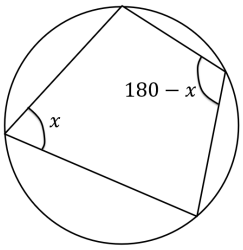

Opposite angles in a cyclic quadrilateral add to 180

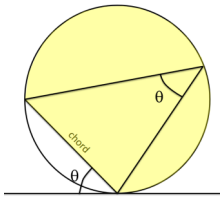

Alternate segment theorem

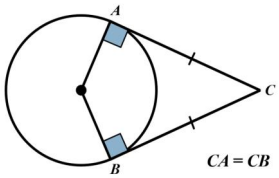

Tangents to a circle from an external point are equal in length